This assignment will not be graded and is only for practice.

Multiple Select Questions (MSQ):

1) Match the systems of linear equations in Column A with their number of solutions in Column B and their geometric representation in Column C. ***1 point***

	System of linear equations (Column A)		Number of solutions (Column B)		Geometric representations (Column C)
i)	$3x + 2y = 7,\ x + 4y = 12$	a)	Infinite solutions	1)	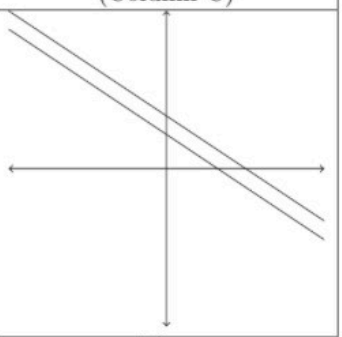
ii)	$2x + 3y = 5,\ 8x + 12y = 13$	b)	No solution	2)	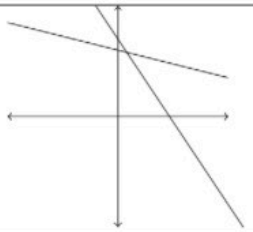
iii)	$x + 2y = 3,\ 4x + 8y = 12$	c)	Unique solution	3)	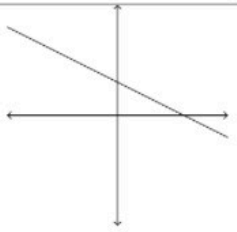

Table: M2W1PT1

- [ ] i) → c) → 2)
- [ ] i) → a) → 1)
- [ ] ii) → c) → 3)
- [ ] iii) → a) → 2)
- [ ] ii) → b) → 1)

No, the answer is incorrect.

Score: 0